Advanced Graphing and Charting

LATEST SUBMISSION GRADE

100%

1. Download the spreadsheet "chicagocrimedata.xlsx" below. **Use the data in the "Question 1 - get data" tab for the remainder of the assignment.**

1 / 1 point

chicagocrimedata.xlsx

Fill in the tab, "Question 1 - get data" using the VLOOKUP formula. What is the value in cell C200?

79

✓ **Correct**

2. Use a pivot chart to create a bar plot of the average assaults by day of week. Which days of week has the fewest assaults on average?

1 / 1 point

- ○ Weekdays (Monday - Friday)
- ◉ Weekends (Saturday and Sunday)
- ○ Sunday and Monday
- ○ Friday and Thursday

✓ **Correct**

3. Modify the pivot plot to plot the average temperatures by day of week. What does it look like?

1 / 1 point

○

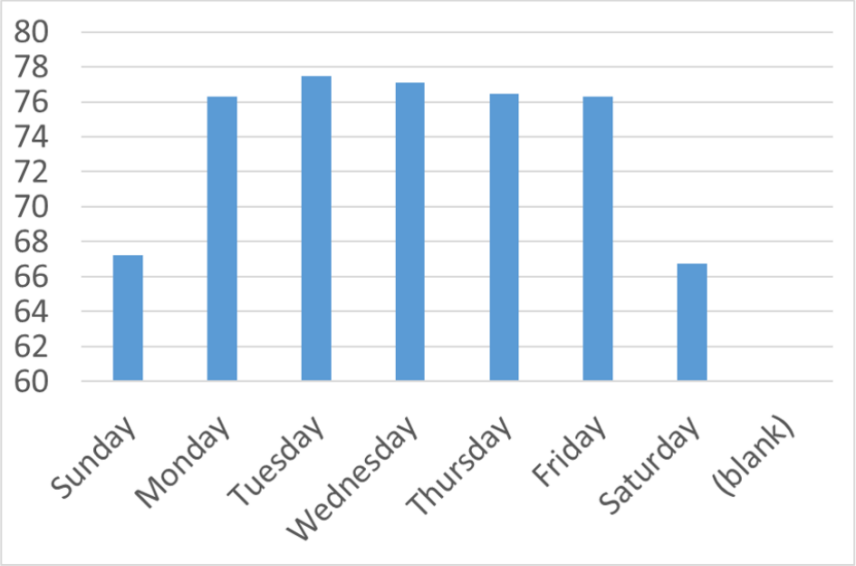

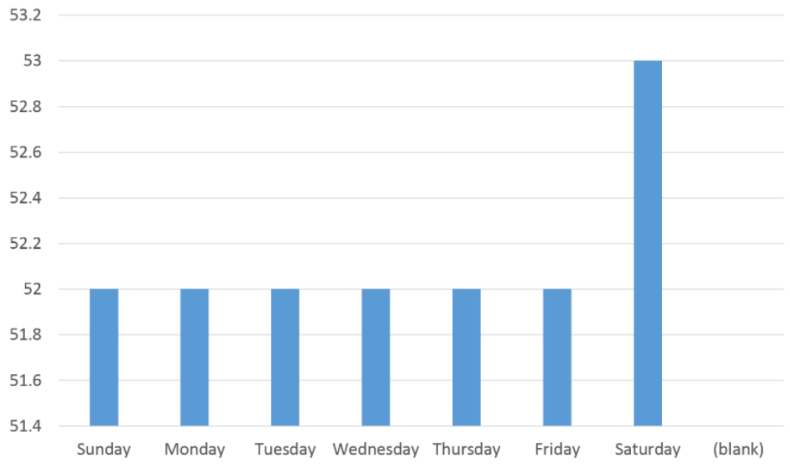
53.2
53
52.8
52.6
52.4
52.2
52
51.8
51.6
51.4
Sunday
Monday
Tuesday
Wednesday
Thursday
Friday
Saturday
(blank)

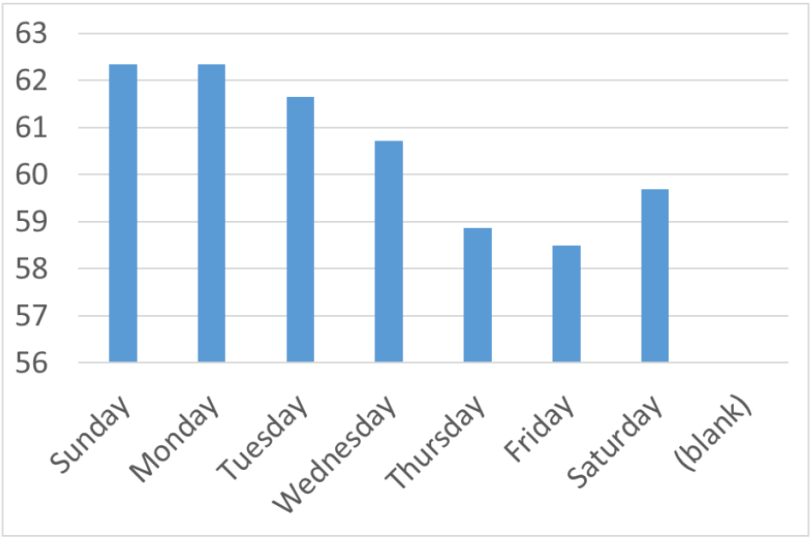
63
62
61
60
59
58
57
56
Sunday
Monday
Tuesday
Wednesday
Thursday
Friday
Saturday
(blank)

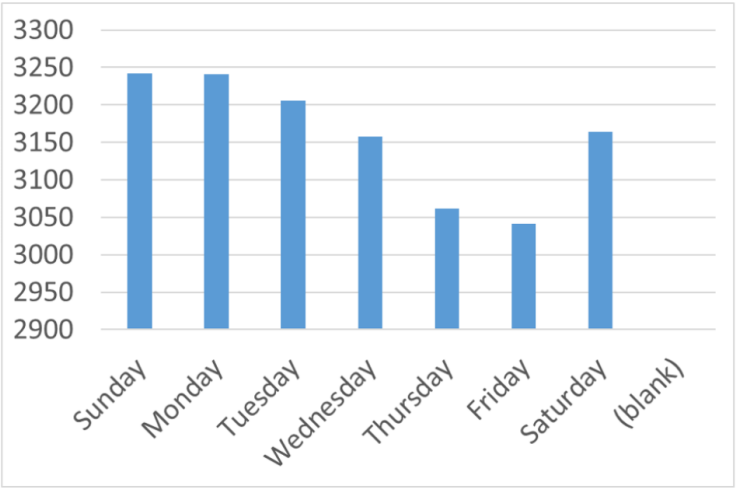
3300
3250
3200
3150
3100
3050
3000
2950
2900
Sunday
Monday
Tuesday
Wednesday
Thursday
Friday
Saturday
(blank)

4. Create a scatter plot of Assault (Y axis) vs. Temperature (X axis). What does it look like?

1 / 1 point

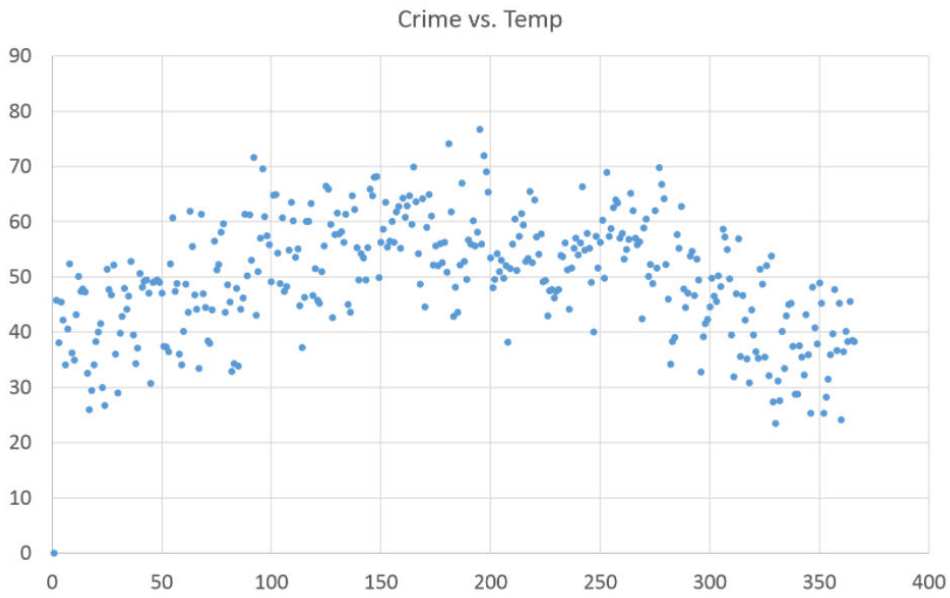

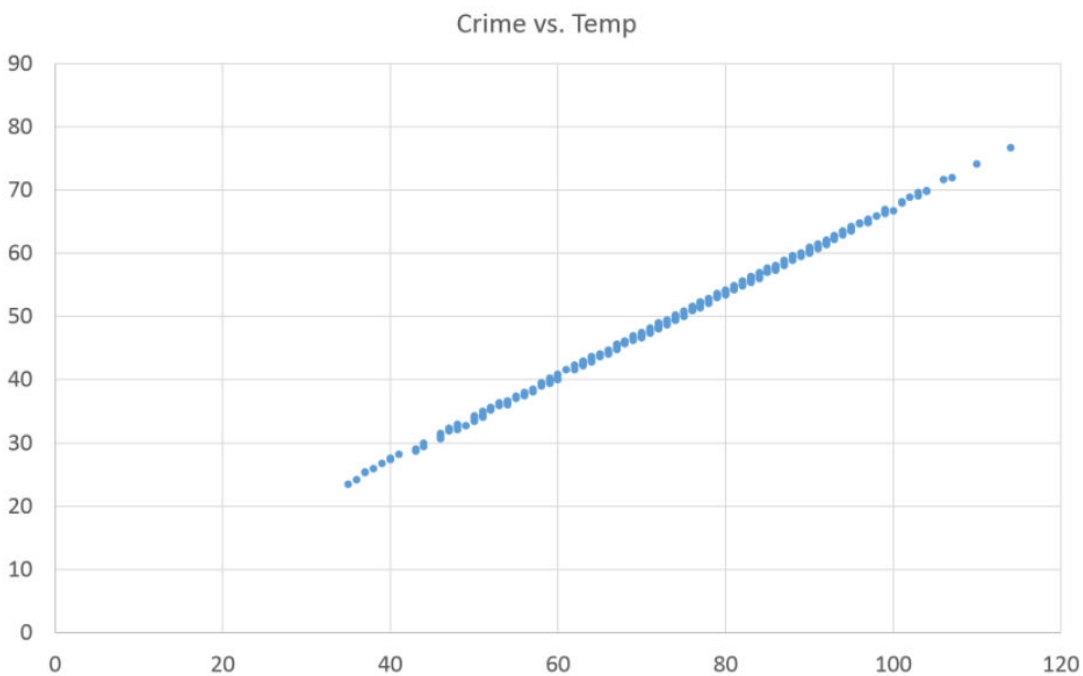

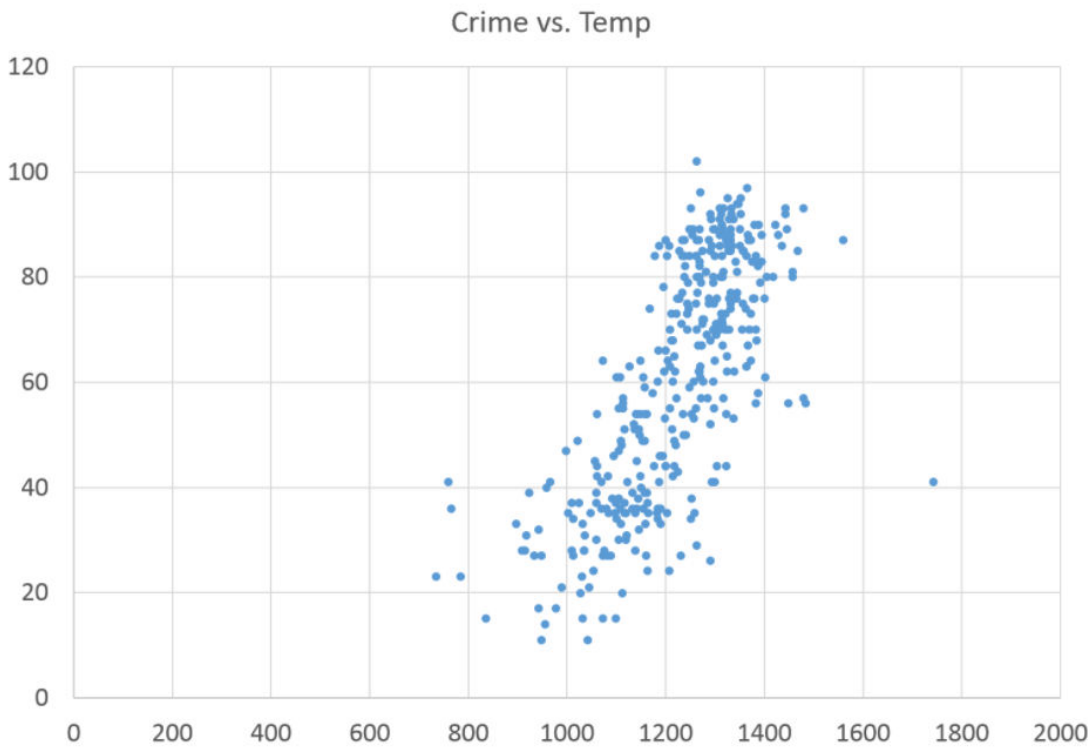
Crime vs. Temp
120
100
80
60
40
20
0
0
200
400
600
800
1000
1200
1400
1600
1800
2000

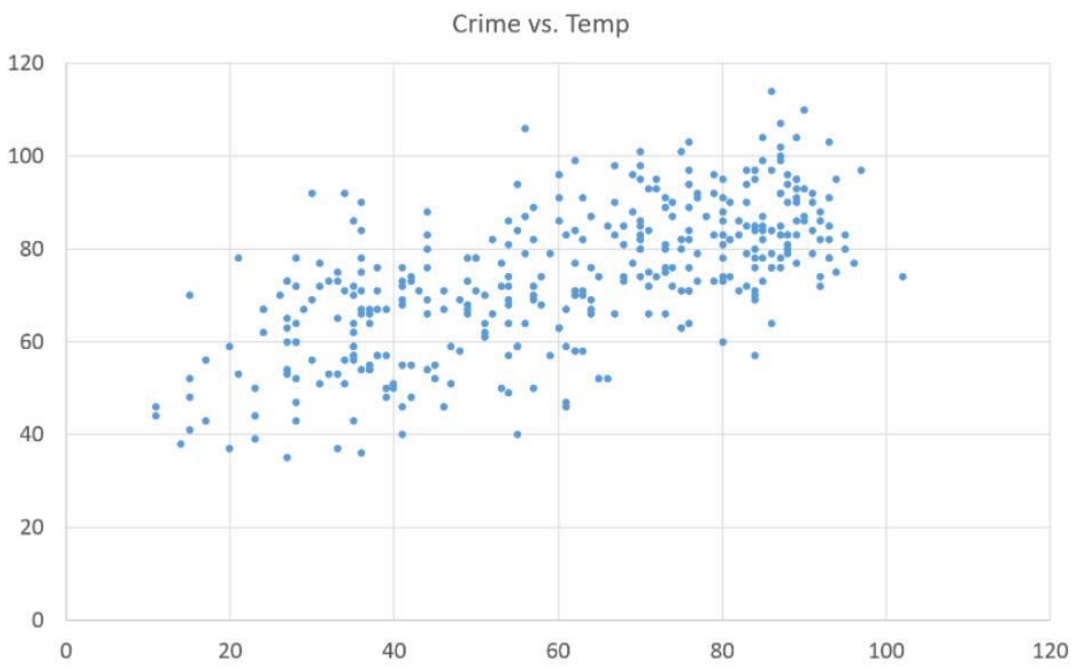
Crime vs. Temp
120
100
80
60
40
20
0
0
20
40
60
80
100
120

5. What is the possible relationship between crime and temperature?

1 / 1 point

- (●) Crime increases as temperature rises.
- ( ) Crime decreases when temperature rises.
- ( ) Temperature and crime are unrelated.
- ( ) Temperature increases as crime rises.

✓ **Correct**

6. Find the minimum and maximum number of assaults, and create 10 evenly spaced bins that cover the data on assaults. What is the approximate bin width?

1 / 1 point

- (●) 8
- ( ) 10
- ( ) 15
- ( ) 2

✓ **Correct**

7. Create a histogram using the assaults data and 10 bins. What can you conclude based on the histogram?

1 / 1 point

- ( ) The distribution of assaults is skewed to the right.
- (●) The distribution of assaults is symmetric.
- ( ) 100 assaults is about a typical day in Chicago.
- ( ) Crime is highest midweek?

✓ **Correct**