Line Graphs

TOTAL POINTS 2

1. How can one change the formatting of a graph's axis? Click all that apply.

1 / 1 point

- [ ] Left click on the axis
- [x] Use the layout tab

✓ **Correct**

- [x] Right click on the axis

✓ **Correct**

- [x] Right click anywhere inside the chart

✓ **Correct**

2. Examine the line chart below (click the file link to view a larger version of the image). What will happen to the chart when one changes the content of cell B1 to "United States."

1 / 1 point

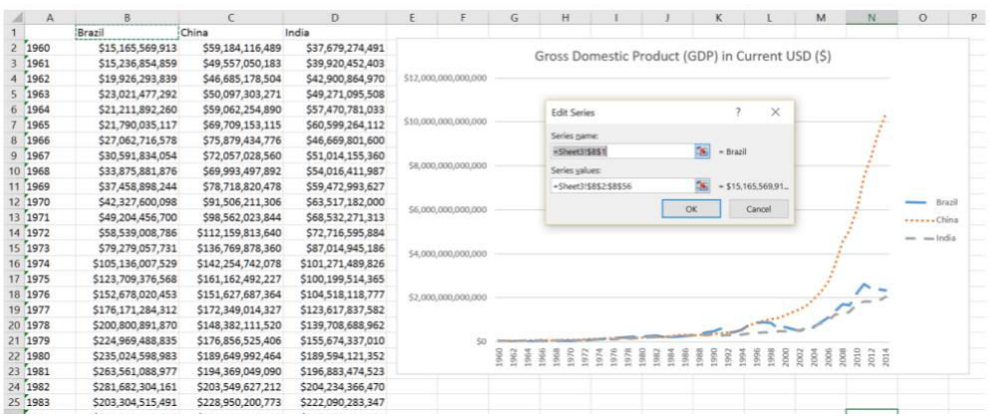

	A	B	C	D
1		Brazil	China	India
2	1960	$15,165,569,913	$59,184,116,489	$37,679,274,491
3	1961	$15,236,854,859	$49,557,050,183	$39,920,452,403
4	1962	$19,926,293,839	$46,685,178,504	$42,900,864,970
5	1963	$23,021,477,292	$50,097,303,271	$49,271,095,508
6	1964	$21,211,892,260	$59,062,254,890	$57,470,781,033
7	1965	$21,790,035,117	$69,709,153,115	$60,599,264,112
8	1966	$27,062,716,578	$75,879,434,776	$46,669,801,600
9	1967	$30,591,834,054	$72,057,028,560	$51,014,155,360
10	1968	$33,875,881,876	$69,993,497,892	$54,016,411,987
11	1969	$37,458,898,244	$78,718,820,478	$59,472,993,627
12	1970	$42,327,600,098	$91,506,211,306	$63,517,182,000
13	1971	$49,204,456,700	$98,562,023,844	$68,532,271,313
14	1972	$58,539,008,786	$112,159,813,640	$72,716,595,884
15	1973	$79,279,057,731	$136,769,878,360	$87,014,945,186
16	1974	$105,136,007,529	$142,254,742,078	$101,271,489,826
17	1975	$123,709,376,568	$161,162,492,227	$100,199,514,365
18	1976	$152,678,020,453	$151,627,687,364	$104,518,118,777
19	1977	$176,171,284,312	$172,349,014,327	$123,617,837,582
20	1978	$200,800,891,870	$148,382,111,520	$139,708,688,962
21	1979	$224,969,488,835	$176,856,525,406	$155,674,337,010
22	1980	$235,024,598,983	$189,649,992,464	$189,594,121,352
23	1981	$263,561,088,977	$194,369,049,090	$196,883,474,523
24	1982	$281,682,304,161	$203,549,627,212	$204,234,366,470
25	1983	$203,304,515,491	$228,950,200,773	$222,090,283,347

- (●) The current line for Brazil will be relabeled "United States" in the legend.
- ( ) The current line for Brazil will move above the current line for China.
- ( ) Chart title will change to "GDP of the United States."

✓ **Correct**

Bar Graphs and Pie Charts

TOTAL POINTS 2

1. Approximately how much higher is the GDP of China compared to Brazil? Use billions of dollars, ex. 40,000,000,000 should be written as 40.

1 / 1 point

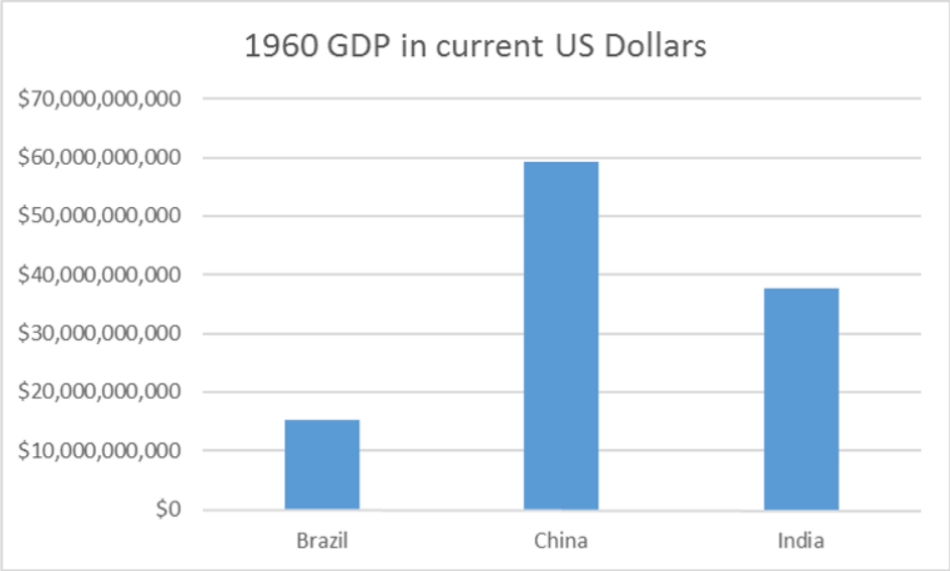

45

Correct

The difference is roughly $44 billion

2. What can we not learn from the following pie chart?

1 / 1 point

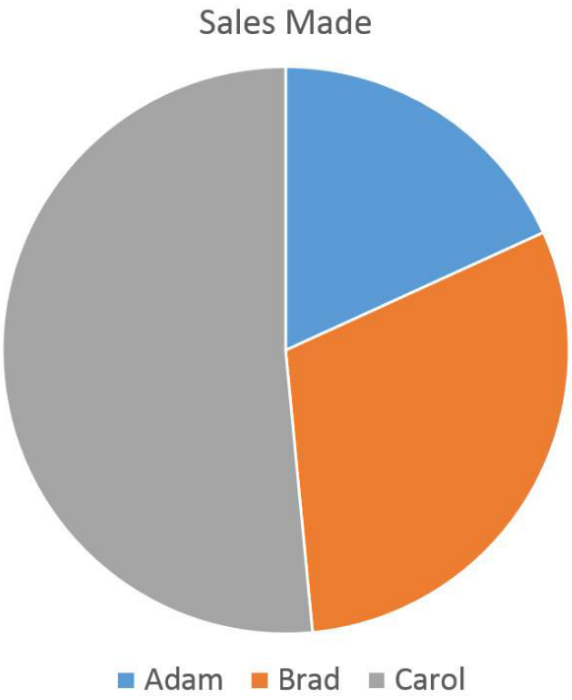

- ○ Carol sold more than Brad and Adam combined.
- ○ Adam sold the least.
- ○ Adam, Brad, and Carol combined to represent 100% of sales.
- ◉ Altogether, Adam, Brad, and Carol sold $100 worth of goods.

✓ **Correct**

Pivot Charts

TOTAL POINTS 2

1. Pivot charts are powerful because they allow you to...

1 / 1 point

- construct line charts.
- (●) make charts interactive.
- construct charts with more data.
- flip charts from horizontal to vertical orientation.

✓ **Correct**

2.

1 / 1 point

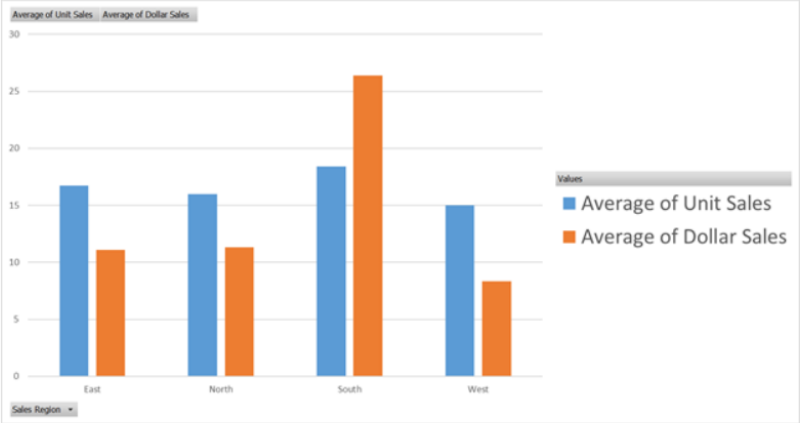

What's the fastest way to change the pivot chart above to view totals of unit and dollar sales?

- (●) Change "value field settings" for each variable from "average" to "sum" of that variable.
- Change the data to represent totals rather than average.
- Select sales region to reflect one region at a time.

✓ **Correct**

Scatter Plots

TOTAL POINTS 2

1. Which of the following reflects the main strength of a scatter plot?

1 / 1 point

- ○ Scatter plots can be used to visualize any two variables.
- ○ Scatter plots easily show time trends.
- ◉ Scatter plots help visualize relationships between two variables.
- ○ Scatter plots visualize relationships between many variables.

✓ Correct

2. What is the relationship between employee experience and sales demonstrated in the chart below?

1 / 1 point

- ○ As experience declines, sales increase.
- ○ As sales increase, experience increases.
- ◉ As experience increases, sales increase.
- ○ Experience and sales are unrelated.

✓ Correct

Histograms Part 1

TOTAL POINTS 1

1.

1 / 1 point

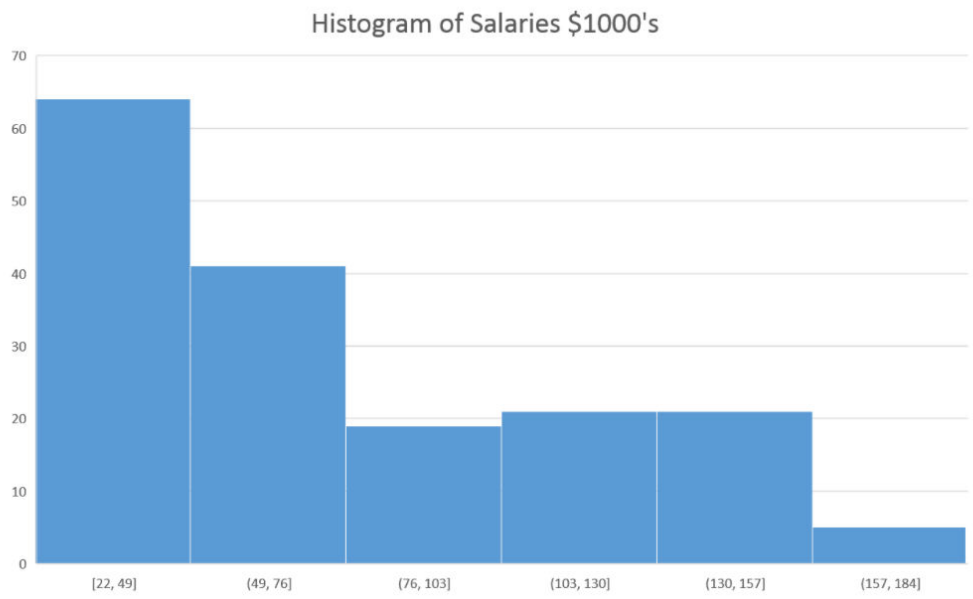

Based on the histogram above, what can you say about income?

- [x] Income is skewed to the right. The majority of individuals in this dataset have low salaries relative to others in this dataset.

✓ **Correct**

- [ ] Income is skewed to the left. The majority of individuals in this dataset have high salaries relative to others in this dataset.
- [ ] Salaries are symmetrically distributed.
- [ ] The average salary is $103000.

Histograms Part 2

TOTAL POINTS 2

1. What do you need to do in Excel versions prior to 2016 to create a histogram?

1 / 1 point

- [x] Create bins for your data.

  ✓ Correct

- [x] Enable DataAnalysis ToolPak.

  ✓ Correct

- [x] Make sure the minimum value is larger than the smallest bin value.

  ✓ Correct

- [ ] Uncheck the chart option.

2.

1 / 1 point

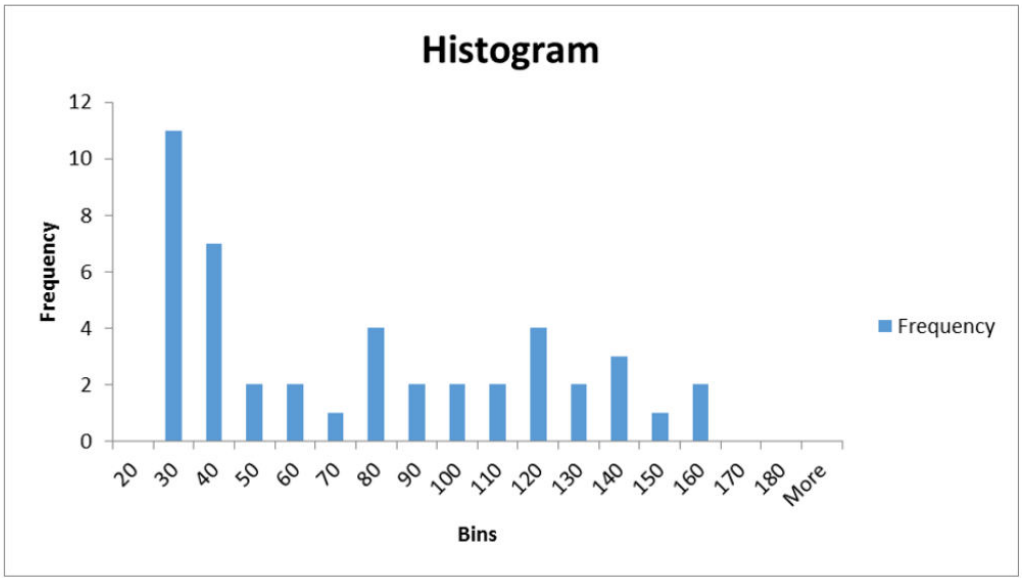

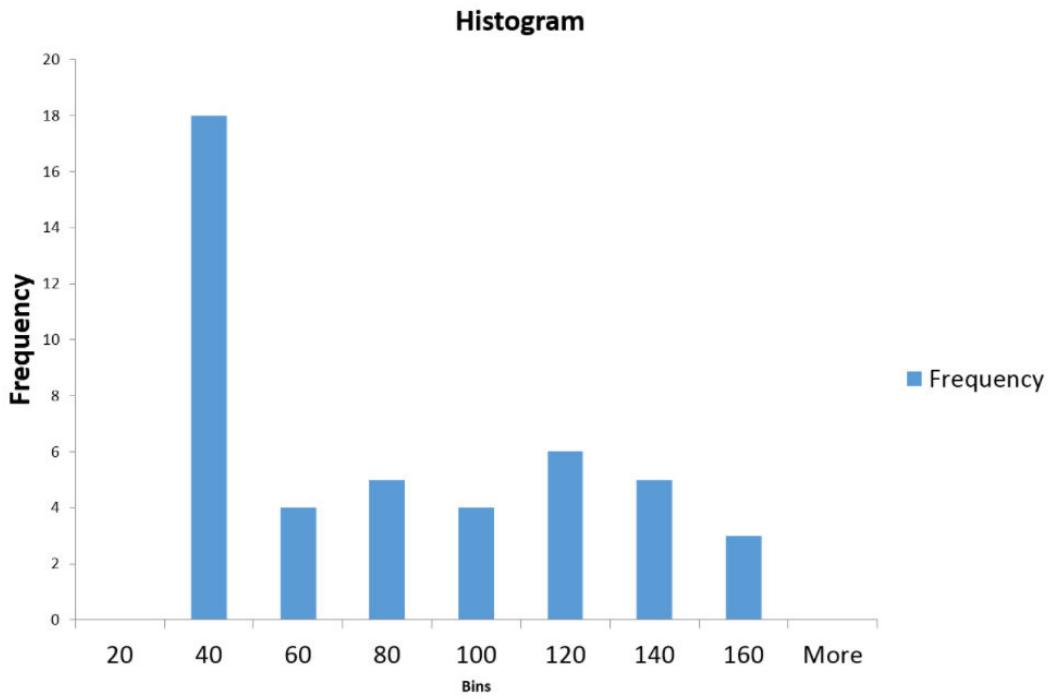

What was done to transform the first histogram into the second one?

- ○ Data multiplied by 2.
- ○ Doubled the number of data points.
- ◉ Bin widths doubled.
- ○ New data is used.

✓ **Correct**